2. trinn
høsten

Kartlegging av regneferdigheter

Elev:_____

Klasse:____

År:_____

Kontaktlærer:_____

1. **Hvor mange av hver?**

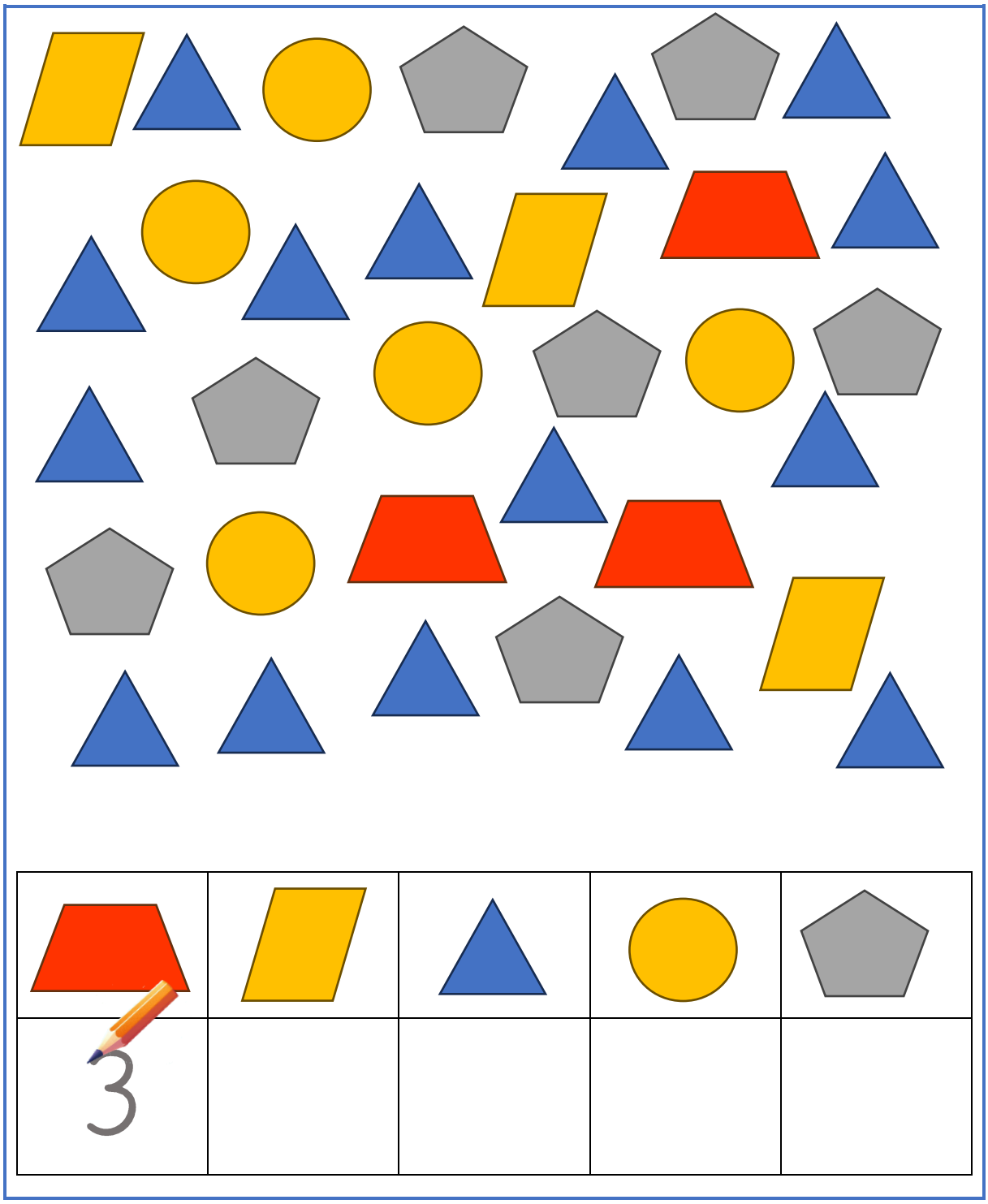

2. Hvor mange?

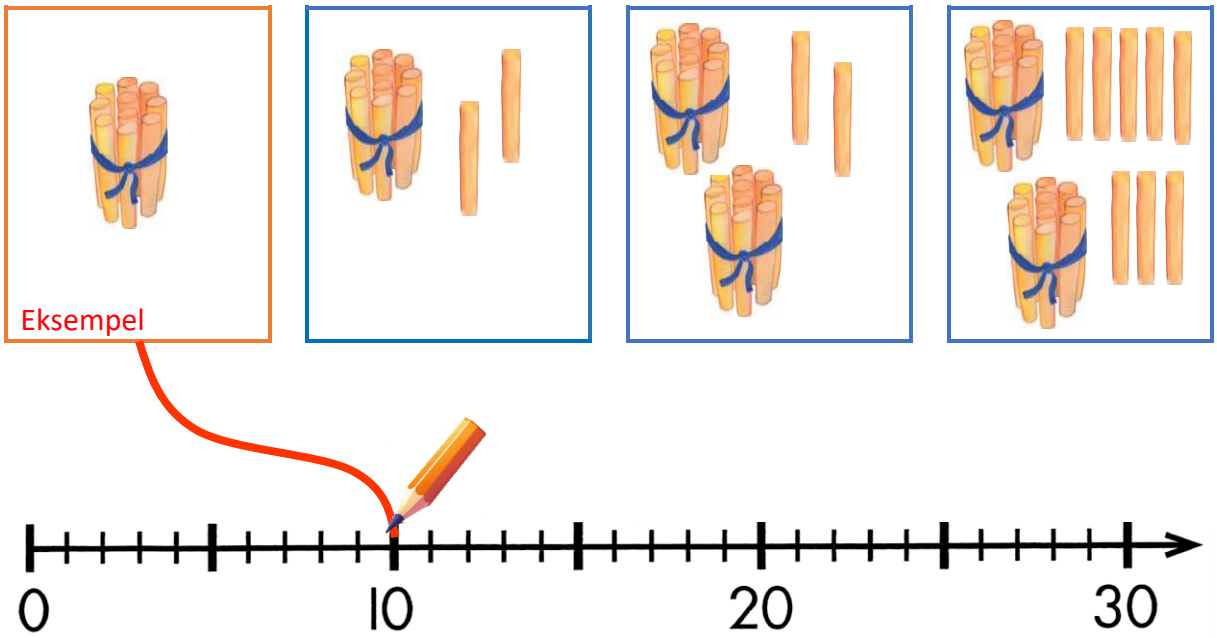

3. Nærmeste tall

Eksempel

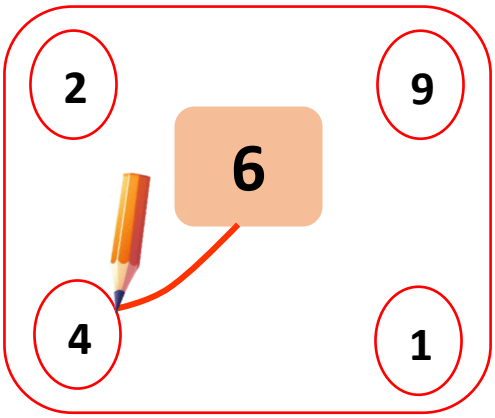

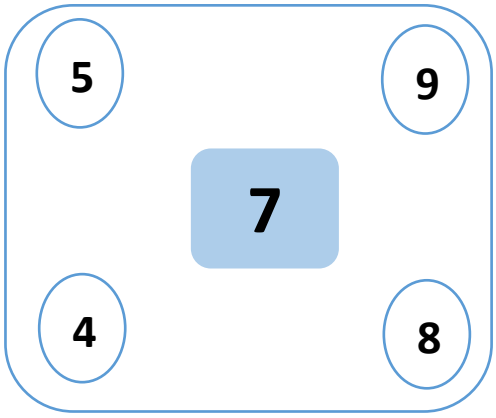

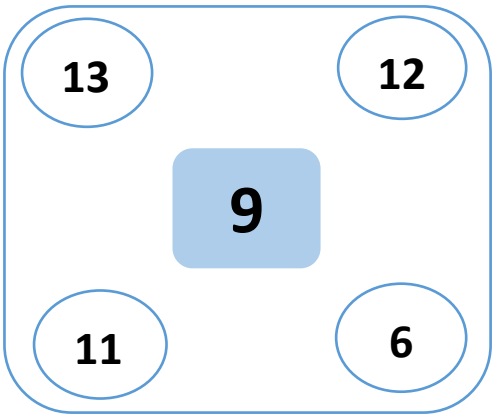

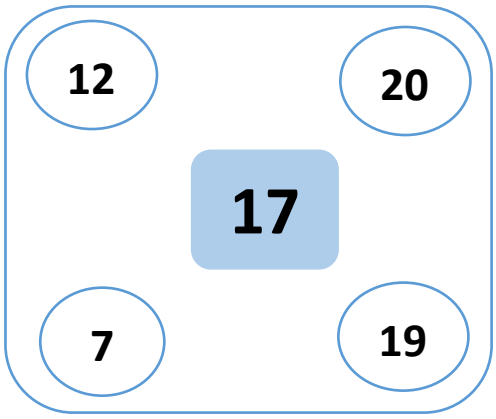

4. Størst verdi

Eksempel

20	**16**	**21**

69	**70**	**17**

5. Tiere og enere

12 = 10 + ___	17 = ___ + 7
23 = 20 + ___	35 = ___ + 5
40 = 40 + ___	51 = ___ + 1

6. Tegn ring rundt halvparten

Eksempel

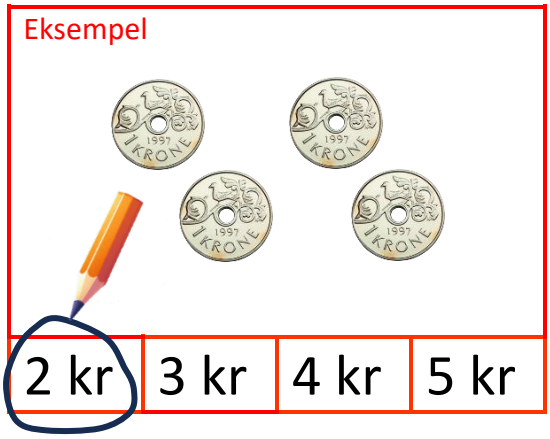

2 kr	3 kr	4 kr	5 kr

10 kr	20 kr	25 kr	30 kr

1 kr	2 kr	3 kr	4 kr

6 kr	7 kr	8 kr	9 kr

7. Tallrekker

Eksempel

2	3	4	5	6	7

3	5	7			

			13	14	15

22	24	26			

10	15	20			

8. Skriv tallene i stigende rekkefølge

8 12 17 6 14

Eksempel

6	8	12	14	17

29 33 37 14 41

23 73 13 98 30

27 30 31 72 23

9. Regn ut

4 + 5 = ___	6 + 9 = ___
60 + 9 = ___	20 + 19 = ___

10. Regn ut

8 – 5 = ___	17 – 4 = ___
13 – 12 = ___	30 – 5 = ___