2. trinn
Våren

Kartlegging av regneferdigheter

Elev:_____

Klasse:____

År:_____

Kontaktlærer:_____

1. **Hvor mange? Tegn strek fra bilde til riktig tall på tallinja.**

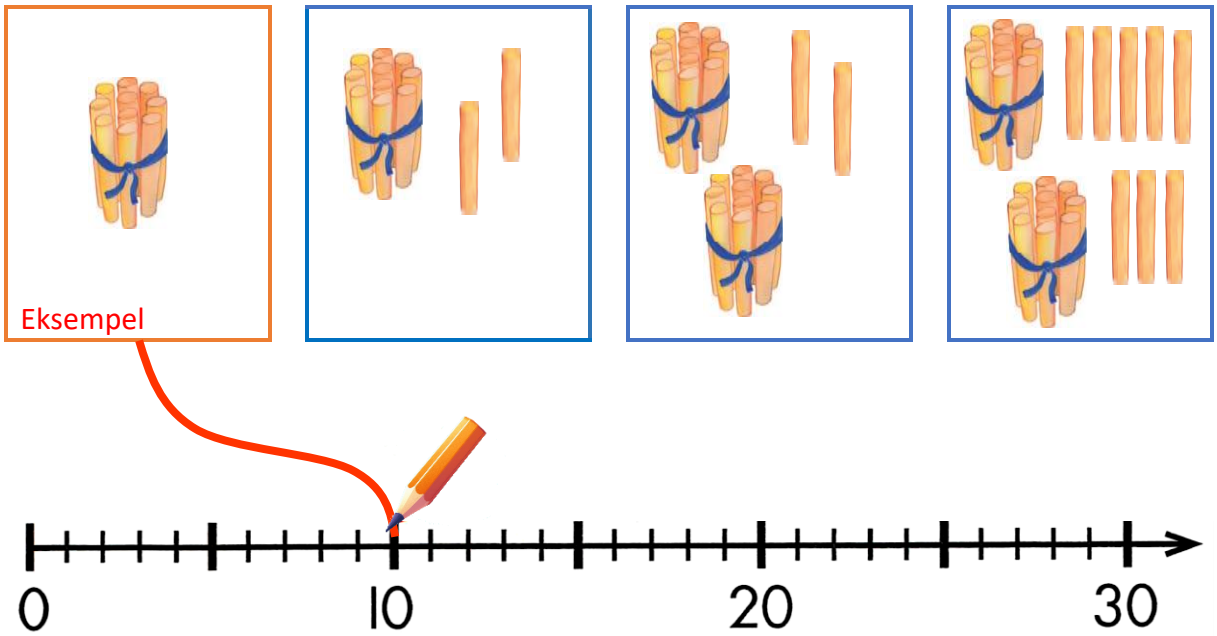

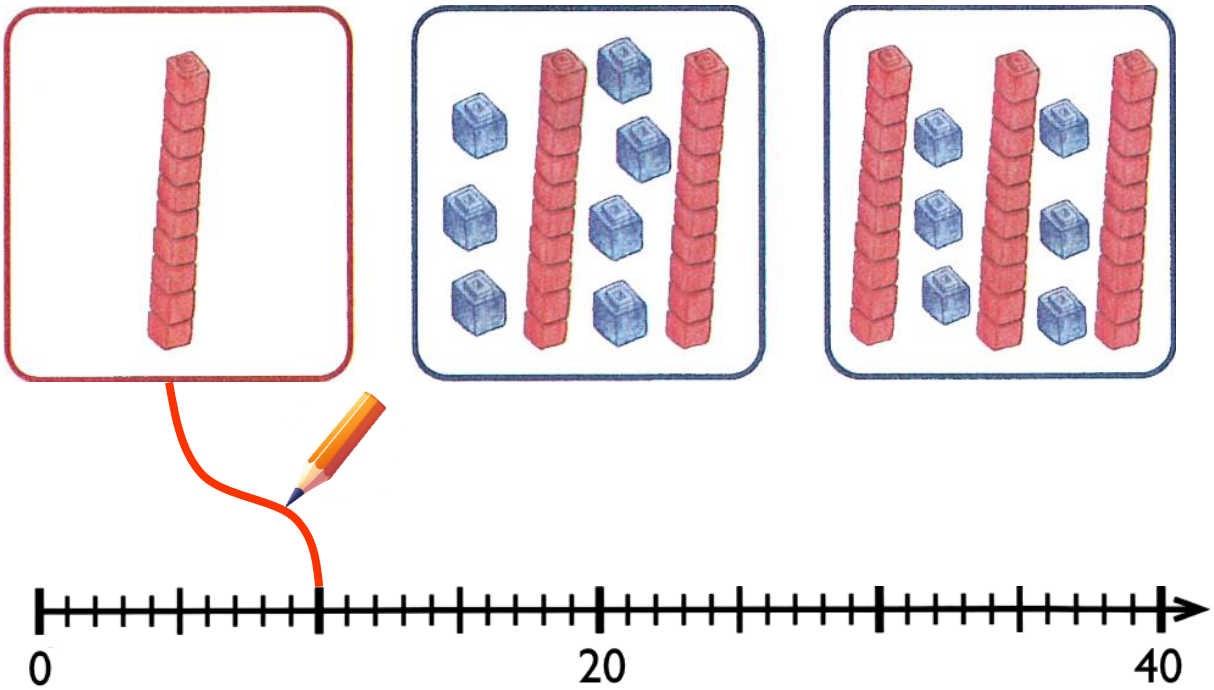

2. Tegn strek ned på riktig sted på tallinja.

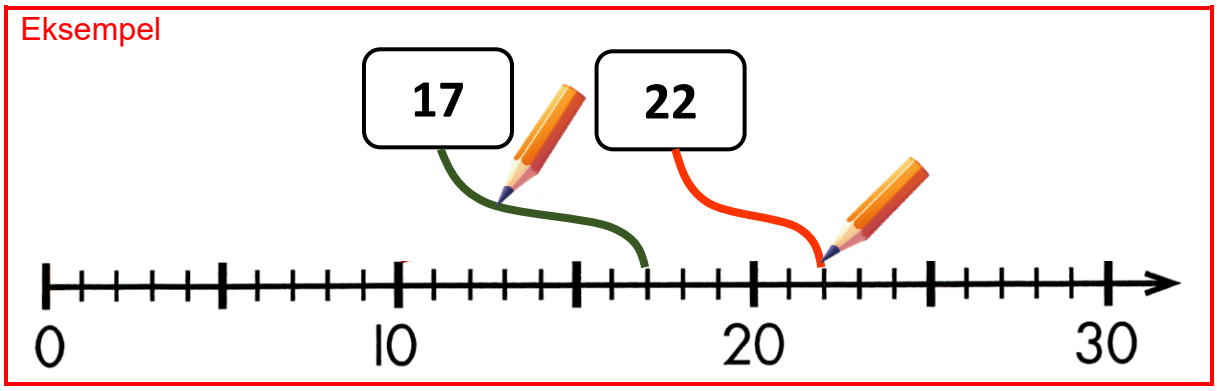

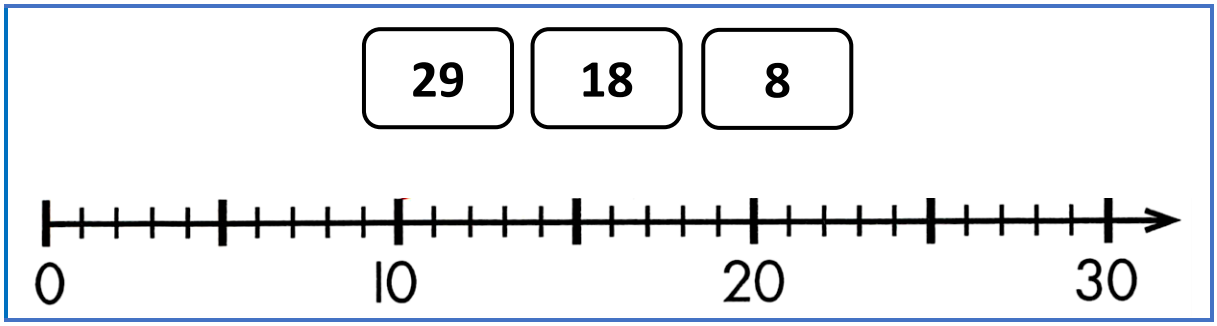

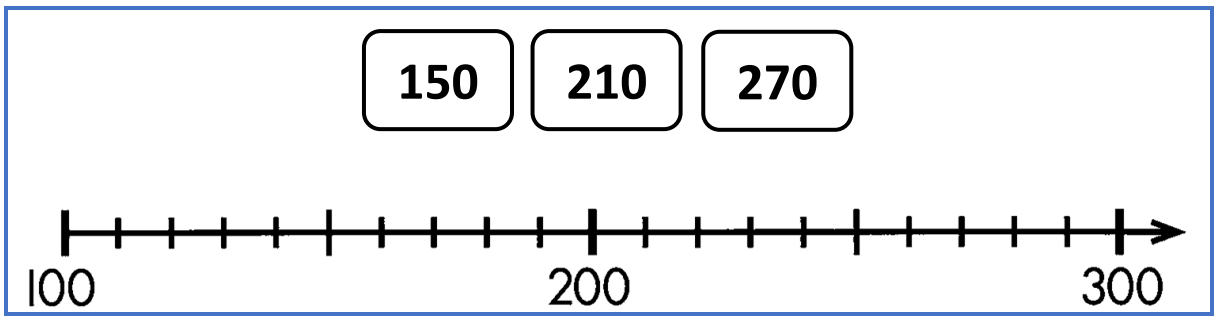

3. Skriv riktig tall i rutene.

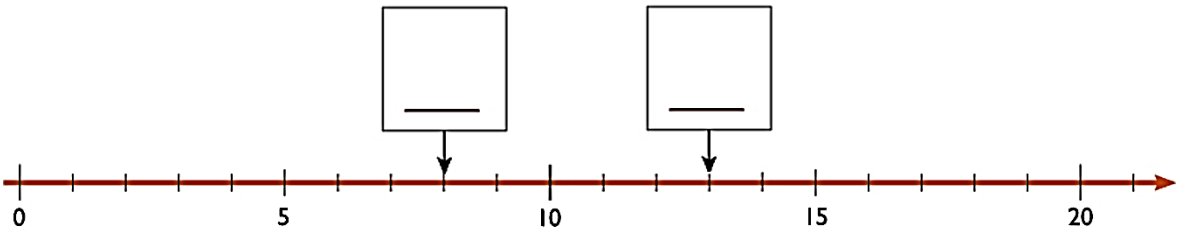

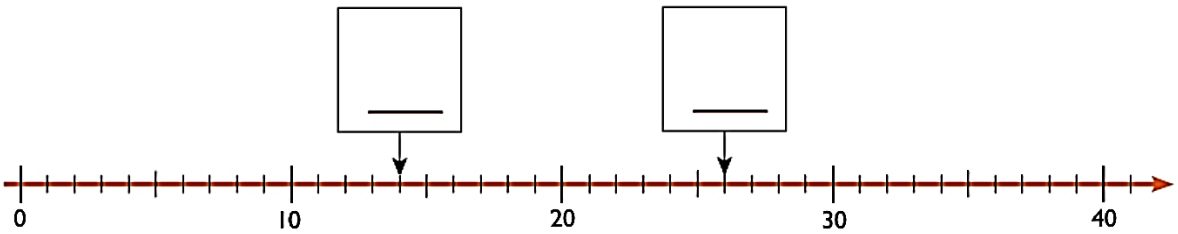

4. Størst verdi

Eksempel

19		**21**

5. Nærmeste tall

Eksempel

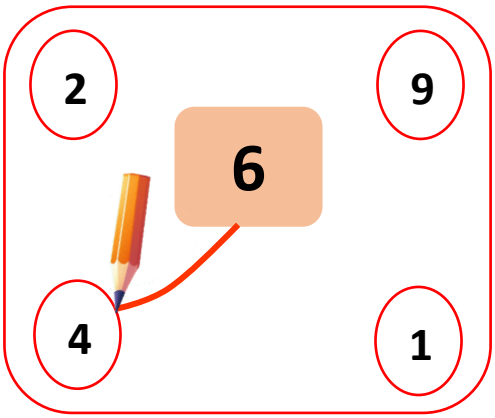

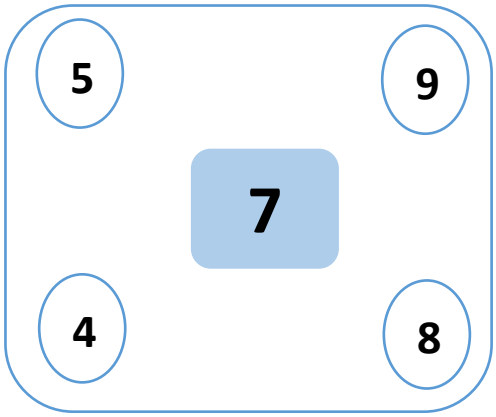

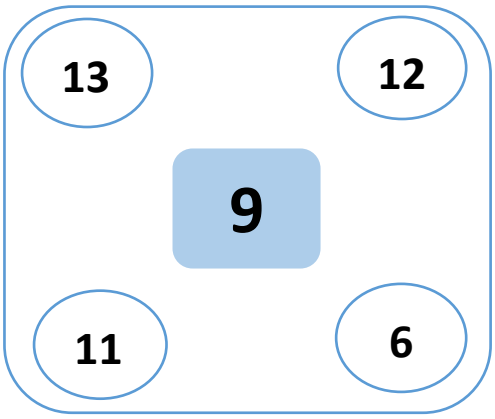

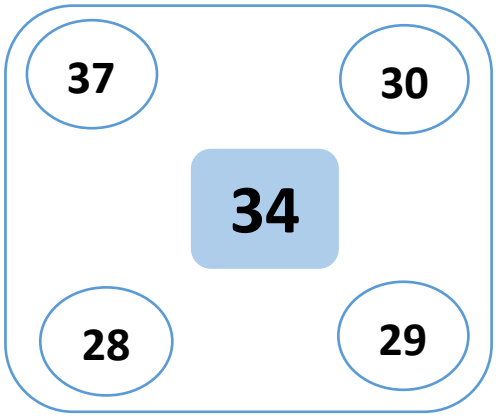

6. Tiere og enere

12 = 10 + ___	17 = ___ + 7
43 = 40 + ___	25 = ___ + 5
80 = 80 + ___	61 = ___ + 1

7. Tegn ring rundt halvparten

Eksempel

2 kr	3 kr	4 kr	5 kr

10 kr	20 kr	25 kr	30 kr

48 kr	49 kr	50 kr	60 kr

13 kr	23 kr	33 kr	43 kr

8. Tegn ring rundt det dobbelte

Eksempel

8 kr	9 kr	10 kr	11 kr

30 kr	35 kr	40 kr	50 kr

29 kr	30 kr	32 kr	33 kr

51 kr	52 kr	53 kr	54 kr

9. Tallrekker

Eksempel

2	3	4	5	6	7

3	5	7			

			13	14	15

22	24	26			

10	15	20			

10. Skriv tallene i stigende rekkefølge

8 12 17
6 14

Eksempel

6	8	12	14	17

29 33 37
14 41

23 73 13
98 30

27 30 31
72 23

11. Regn ut

4 + 5 = ____	6 + 9 = ____
60 + 9 = ____	40 + 19 = ____
5 + ____ = 20	38 = 30 + ____
16 + 7 = ____ + 16	20 + 2 = ____ + 10

12. Regn ut

8 – 5 = ____	17 – 4 = ____
23 – 12 = ____	30 – 5 = ____
14 – ____ = 7	10 = 22 – ____
10 – 5 = 11 – ____	20 – 5 = ____ – 6