1. trinn
våren

Kartlegging av regneferdigheter

Elev:_____

Klasse:____

År:_____

Kontaktlærer:_____

1. Hvor mye?

Eksempel



2 kr	3 kr	4 kr	5 kr

3 kr	5 kr	6 kr	7 kr



8	9	10	11

7 kr	8 kr	9 kr	10 kr



7	8	9	10

9 kr	10 kr	11 kr	12 kr

2. Skriv tallene som mangler.

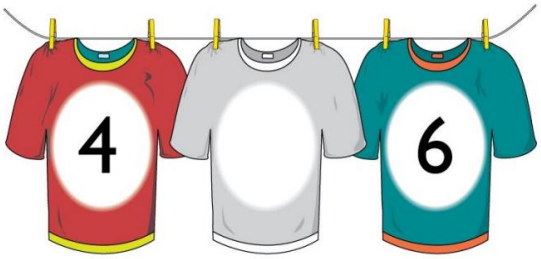

3. Skriv riktig tall på kortet.

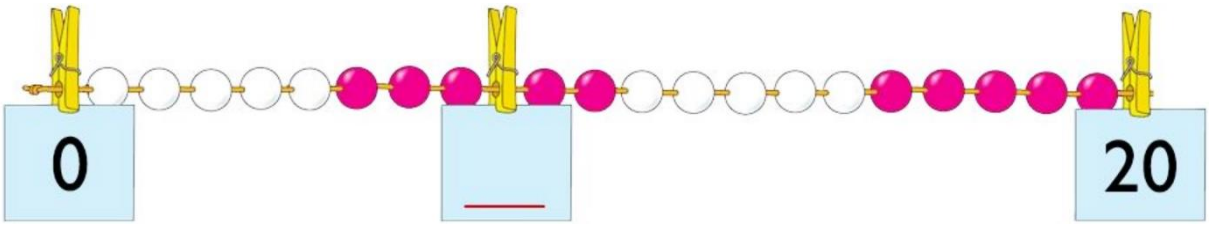



4. Trekk strek fra tallene til riktig plass på tallinjen

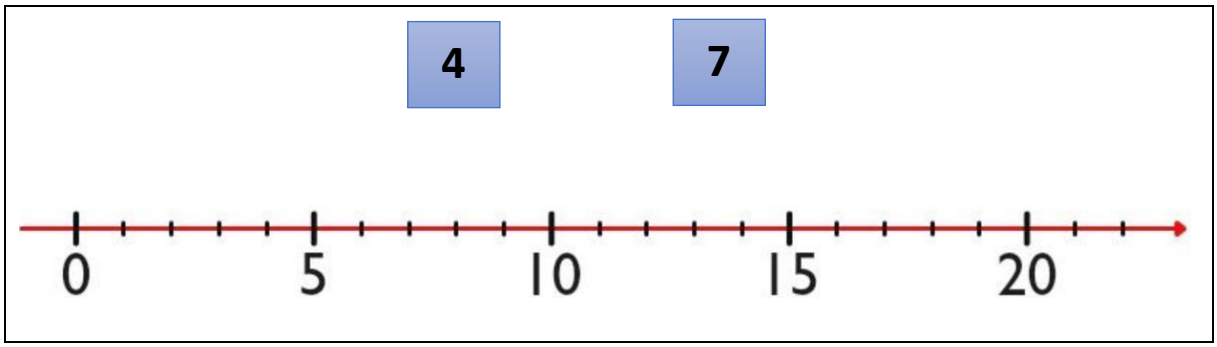

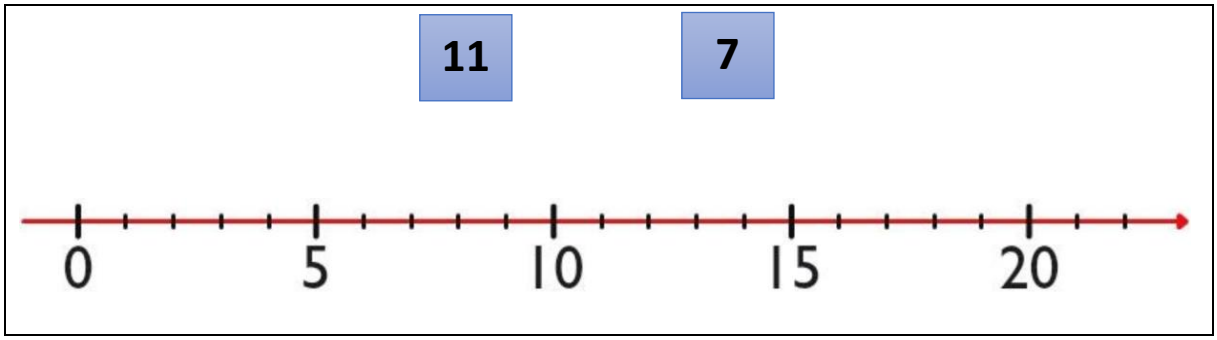

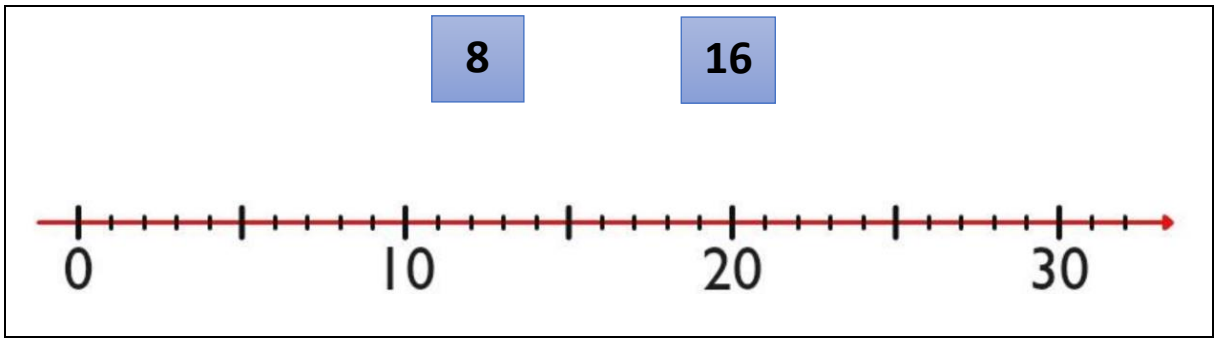

5. Tallrekker. Fyll inn de tomme rutene.

Eksempel

1	2	3	4	5

	4	5		

	5	6	7	

			9	10

6. Skriv tallene i rekkefølge

8 3 2 6

Eksempel

2	3	6	8

4 9 5 1

7 6 9 12 4

11 16 4 9 7

7. Regn ut

2 + 3 = ____	4 + 5 = ____
3 + 8 = ____	5 + 8 = ____

8. Regn ut

5 - 2 = ____	6 - 5 = ____
8 - 3 = ____	10 - 7 = ____

9. Skriv hvor mange penger som er gjemt i den andre hånden.

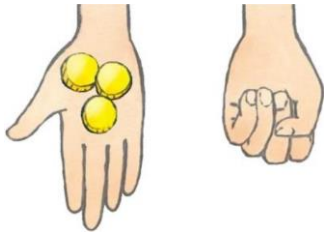

5 = 3 + _____

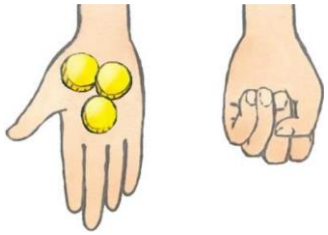

7 = 3 + _____

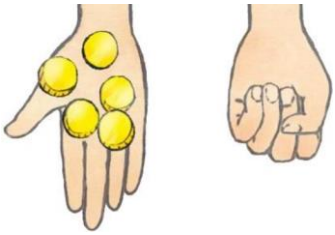

8 = 5 + _____

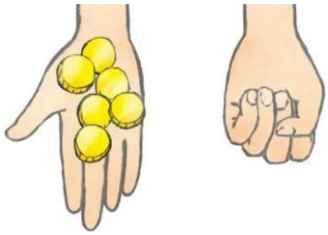

10 = 6 + _____

10. Hvor mye til sammen? Sett ring rundt riktig svar.

Eksempel



4 kr
5 kr
6 kr
7 kr

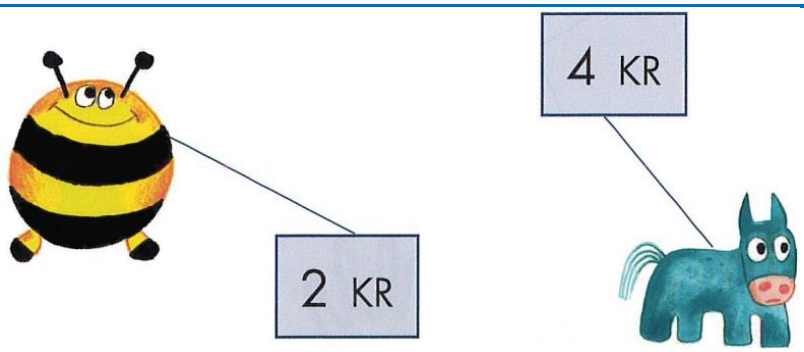

3 kr
5 kr
6 kr
7 kr

6 kr
7 kr
8 kr
9 kr

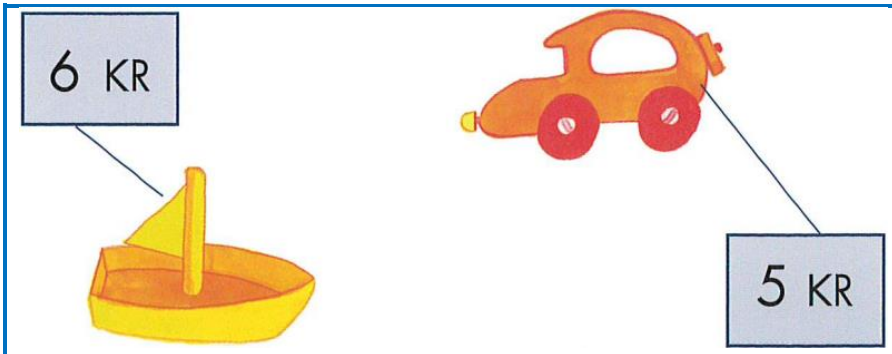

10 kr
11 kr
12 kr
13 kr