3. trinn
høsten

Kartlegging av regneferdigheter

Elev:_____

Klasse:____

År:_____

Kontaktlærer:_____

1. Hvor mye?

Eksempel

12 kr	13 kr	14 kr	15 kr

52 kr	60 kr	65 kr	70 kr



104 kr	113 kr	117 kr	171 kr

176 kr	226 kr	626 kr	636 kr

2. Hvor mange?

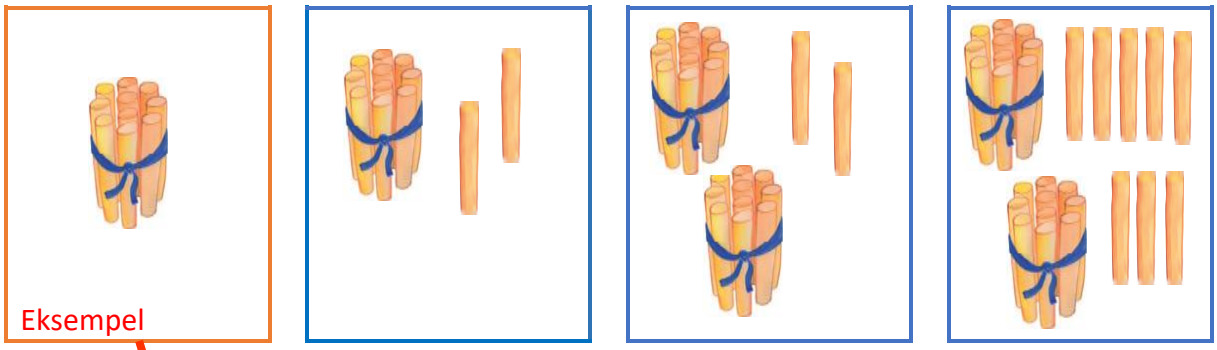

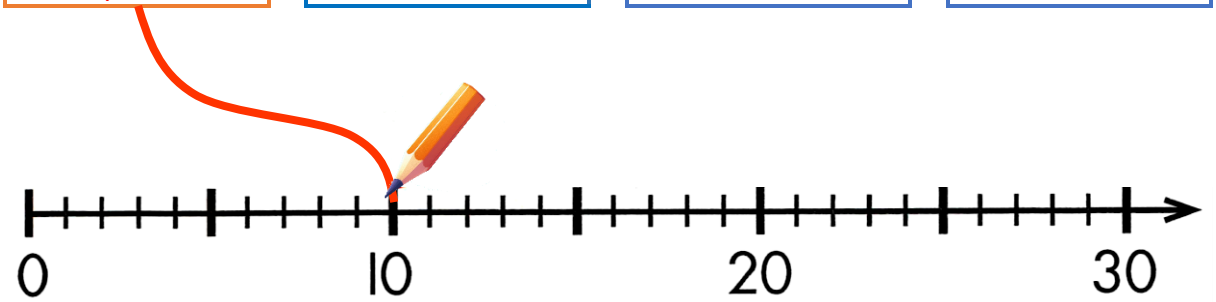

3. Tegn strek ned på riktig sted på tallinja.

Eksempel

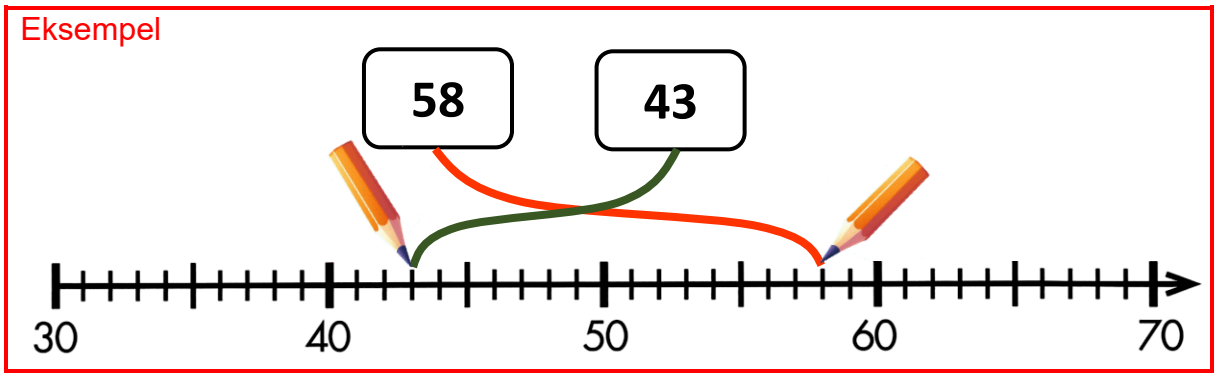

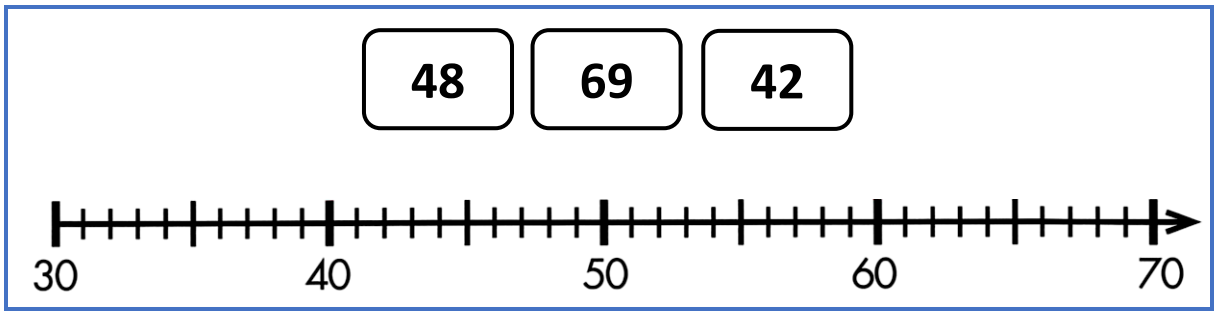

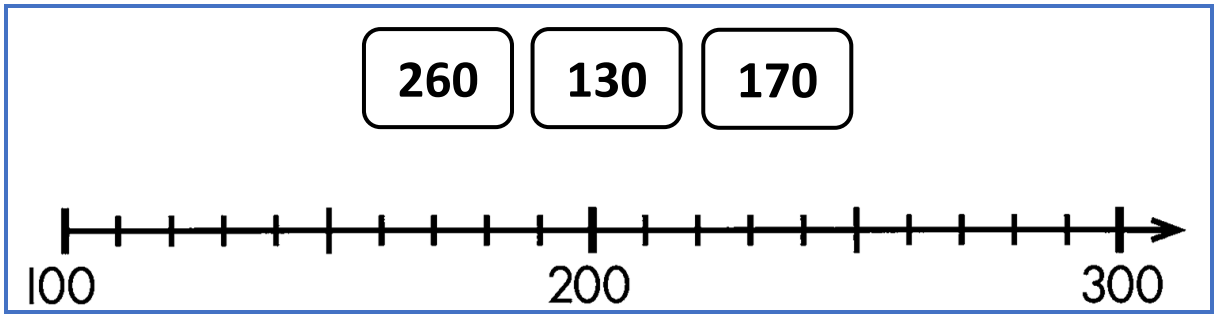

4. Hvor mye er klokka? Sett ring rundt riktig svar.



Halv ett

Fem over seks

Tolv

Halv tolv

Halv 10

Halv 11

10.00

11.00

12.00

13.00

14.00

15.00

5. Nærmeste tall

Eksempel

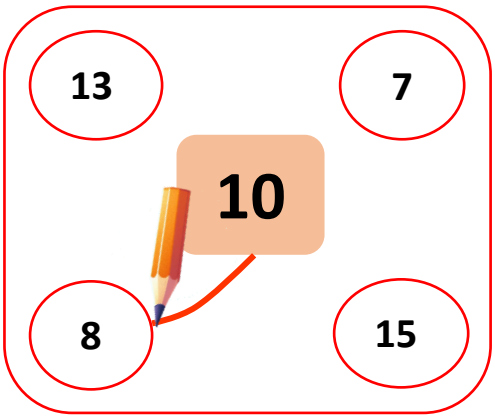

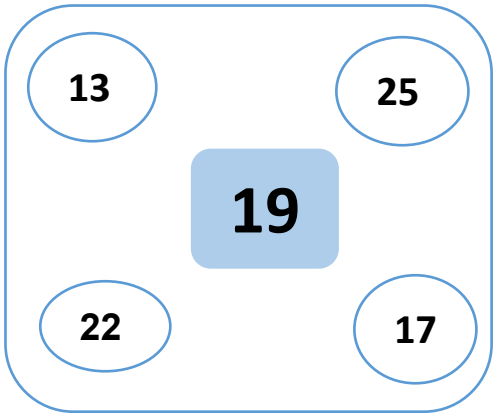

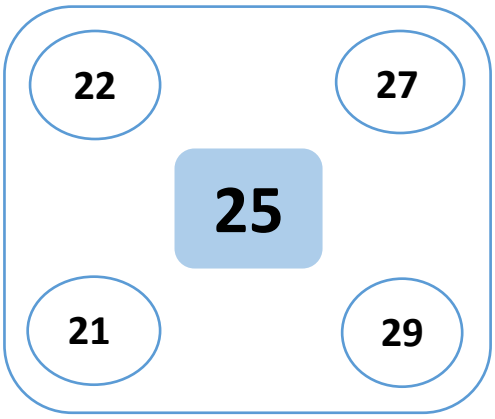

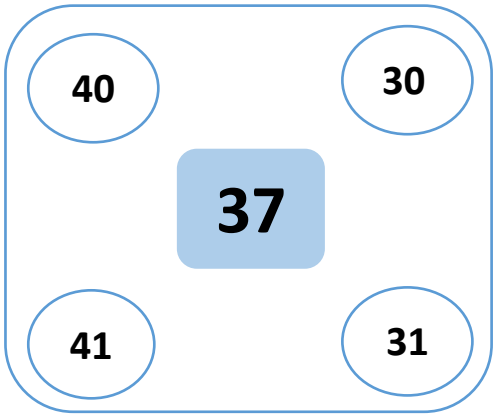

6. Utvidet form

Eksempel

		30	+	8	=	38
			+		=	52
	+		+		=	641
	+		+		=	232

7. Tegn ring rundt halvparten

Eksempel



2 kr	3 kr	4 kr	5 kr

5 kr	10 kr	15 kr	40 kr

8 kr	11 kr	13 kr	32 kr

16 kr	25 kr	26 kr	64 kr

8. Tallrekker

Eksempel

2	4	6	8	10	12

5	10	15			

43	42	41			

14	24	34			

15	17	19			

9. Skriv tallene i stigende rekkefølge

8 12 17
6 14

Eksempel

6	8	12	14	17

94 109 89
114 100

199 217 272
73 98

209 214 139
198 230

10. Regn ut

12 + 5 = ___	19 + 12 = ___
35 + 23 = ___	39 + 19 = ___

11. Regn ut

18 – 6 = ___	20 – 7 = ___
15 – 8 = ___	35 – 12 = ___

12. Hvor mye? Regn ut og skriv svaret.

_____kr

_____kr

_____kr